Green Society Public School

D-10

Ratnanagar-7, Sauraha, Chitwan

Annual Examination-2082

Class: Three **Time: -2 hrs.** **F.M.: 50**

Sub: Maths

Name:	**Roll No.:**	**Sec.:**
_____ **INVIGILATOR**	_____ **EXAMINER**	**OBT.MARKS:**

Group 'A' [10 × 1 = 10]

1) Tick (✔) the correct answer.

a) How many millilitres are there in 1 litre?

i) 10ml ii) 1000ml iii) 100ml

b) The Roman numeral of 51 is:

i) IL ii) XI iii) LI

c) How many zeroes are there in ten-thousand?

i) 5 ii) 4 iii) 3

d) The numerator of 8/5 is:

i) 7 ii) 8 iii) 6

e) Rs 7 is equal to ____ paisa.

i) 700paisa ii) 70paisa iii)7000paisa

f) What comes after 5692?

i) 5691 ii) 5693 iii) 5694

g) What comes before 4502?

i) 4500 ii) 4502 iii) 4501

h) How many angles are there in a circle?

i) 2 ii) 0 iii) 1

i) How many angles are there in a rectangle?

i) 3 ii) 5 iii) 4

j) Descending order means:

i) big to big ii) big to small iii) small to big

Group 'B' [12 × 2 = 24]

2) Find the area of the following. (Each unit square = 1 cm²)



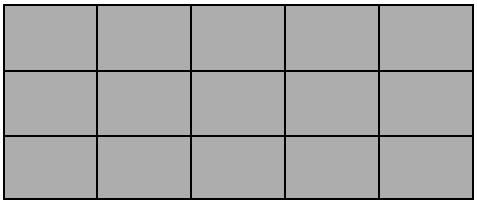

Area = _____ cm² Area = _____cm²

3) Find the perimeter of the followings:

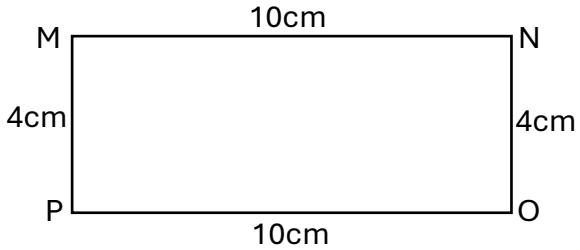

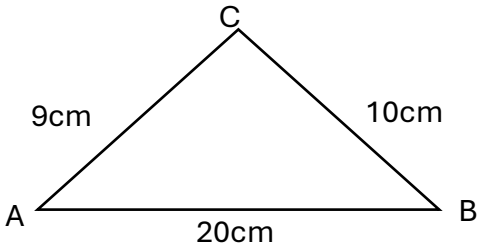

Perimeter =_____ Perimeter =_____

_____ _____

_____ _____

4) Convert the following into litre:

a) 13450 ml b) 33025 ml

1000) 13,450(

5) Arrange the data in ascending order:

6584, 2691, 5105, 3421

_____ _____ _____ _____

6) Expand the following:

24,510 = _____

76,015 = _____

7) Write odd and even numbers:

69,430 = _____ 76,546 = _____

91,071 = _____ 21,669 = _____

8) Identify the shapes of the following:

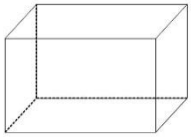

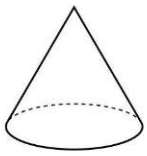

_____ _____

9) Add the following:

	5	6	2	9
+	2	4	7	6

	2	4	9	1
+	6	6	8	0

10) Subtract the following:

	6	2	5	2
−	1	6	7	5

	4	5	0	1
−	2	3	5	1

11) Multiply the following horizontally:

a) 40 × 50 = _____ b) 70 × 20 =_____

12) Write the Roman numerals of the following:

27 = _____ 55 = _____

61 = _____ 100 = _____

13) Divide the following:

640 ÷ 5

5) 640 (

Group 'C' [4 × 4 = 16]

14) Draw a bar graph of the following:

Class	One	Two	Three	Four
No. of students	20	5	40	35

15) Multiply the following:

4 7
× 2 4

6 1
× 5 3

16) Add the following (Rupees and Paisa):

	Rs	Paisa
	7 6	7 6
+	2 9	5 2
	+1	-1 0 0

	Rs	Paisa
	8 1	2 8
+	2 3	8 5

17) Convert the following into metre (m): (Note: 1 km = 1000 m)

a) 56 km

b) 4 km 500 m

The End