D-11

Green Society Public School

Ratnanagar-7, Sauraha, Chitwan

Annual Examination-2082

Class: LKG **Time: - 2 hrs.** **F.M.: 50**

Sub: Maths

Name: **Roll No.:** **Sec.:**

INVIGILATOR **EXAMINER** **OBT.MARKS:**

1. Subtract the following. [3]

=

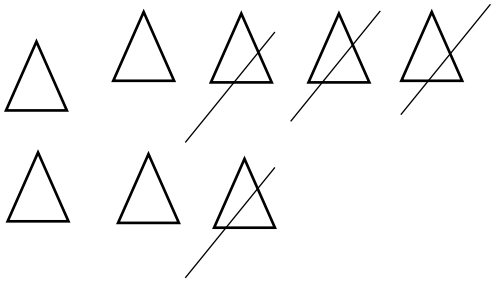

=



=

2. Name the given shapes. [4]

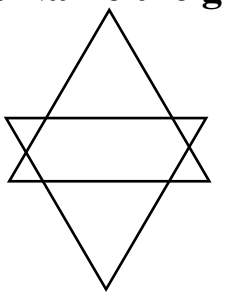



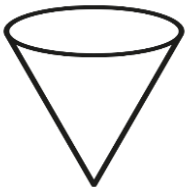

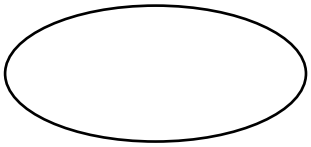

3. What comes before? **[4]**

_____ 36 _____ 63 _____ 47

_____ 73

4. What comes between? **[4]**

45 _____ 47 65 _____ 67 53 _____ 55

84 _____ 86

5. What comes after? **[5]**

58 _____ 83 _____ 62 _____

93 _____ 77 _____

6. Write the numberals as per given numbers names. **[5]**

Eleven [ ] Twenty = [ ]

Fifteen = [ ] Thirty = [ ]

Nineteen = [ ]

7. Write the number's name. **[5]**

6 = ☐ 14 = ☐

8 = ☐ 16 = ☐

12 = ☐

8. Compare the number's and put '>' or '<' or '='. **[5]**

53 ☐ 59 82 ☐ 66 44 ☐ 47

69 ☐ 43 77 ☐ 77

9. Write the Devanagari number's name. **[5]**

४ = ☐ १७ = ☐

९ = ☐ २० = ☐

११ = ☐

10. Match the following. **[5]**

४१ •	• 53
४२ •	• 41
५३ •	• 42
५४ •	• 66
६६ •	• 54

11. Draw the circle and add. **[5]**

$$\begin{array}{r} 3 \\ +\,2 \\ \hline \end{array} \qquad \begin{array}{r} 3 \\ +\,3 \\ \hline \end{array} \qquad \begin{array}{r} 5 \\ +\,3 \\ \hline \end{array}$$

$$\begin{array}{r} 5 \\ +\,5 \\ \hline \end{array} \qquad \begin{array}{r} 2 \\ +\,1 \\ \hline \end{array}$$

The End